Giovanna Santana Pennisi - CTII 350

Lista de Exercícios - Aula 22

Lista de Exercícios

1- Poste

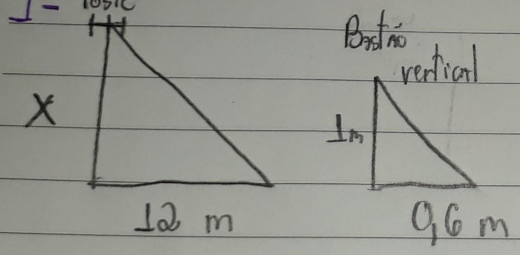

$$\frac{X}{1} = \frac{12}{0,6}$$

$$X = \frac{12}{\frac{6}{10}}$$

$$X = \frac{120}{6}$$

$$X = 20m$$

Alternativa D

2 -

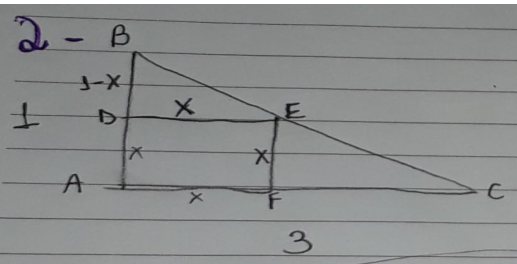

$\overline{DE} \parallel \overline{AC}$

$\overline{AB} \parallel \overline{FE}$

Semelhança de Triângulos:

$\Delta ABC \sim \Delta DBE \sim \Delta FEC$

$$\frac{AB}{DB} = \frac{AC}{DE}$$

$$\frac{AB}{DB} = \frac{AC}{DE} : \frac{1}{1-x} = \frac{3}{x}$$

$$x = 3 - 3x$$

$$x + 3x = 3$$

$$x = \frac{3}{4} \Rightarrow x = 0,75$$

Alternativa B

3-

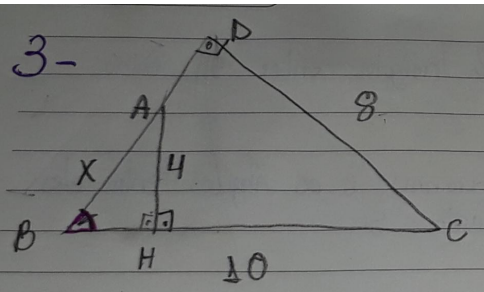

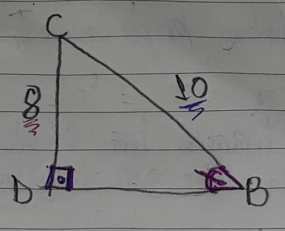

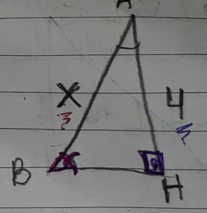

$$\frac{8}{4} = \frac{10}{X} \rightarrow 8x = 40$$

$$x = \frac{40}{8} = x = 5$$

Alternativa C